REGIM DINAMIC

- Aprox Semnal Mic -

1) Calcul P.S.F. $U_0(V_{cc}, 0)$

2) Liniarizare în jurul P.S.F

3) Calculăm $U_0(0, U_i)$ cu circuitul liniarizat

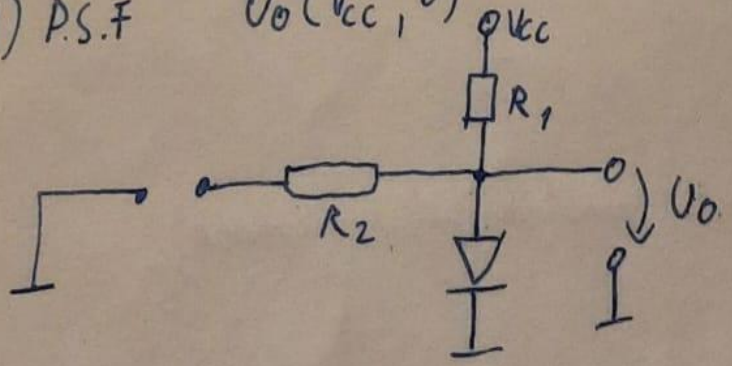
4) Aplicăm Suprapoziția $U_0(V_{cc}, U_i) = U_0(V_{cc}, 0) + U_0(0, U_i)$

$$I_D = I_S\left(e^{\frac{q_0 U_D}{KT}} - 1\right) \simeq I_S e^{\frac{q_0 U_D}{KT}}$$

$$\frac{dI_0}{dU_0} = \frac{d\left(I_S e^{\frac{q_0 U_D}{KT}}\right)}{dU_D} = \frac{q_0}{KT} I_S e^{\frac{q_0 U_0}{KT}} = \frac{q_0}{KT} I_D$$

$$R_D = \frac{dU_D}{dI_D} = \frac{KT}{q_0 I_D} \simeq \frac{1}{40 I_D} \quad I_D(mA) \Rightarrow R_D$$

1) P.S.F $U_0(V_{cc}, 0)$

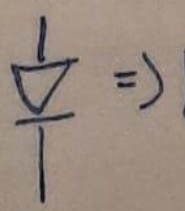
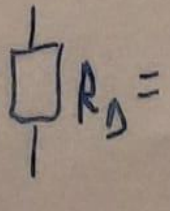


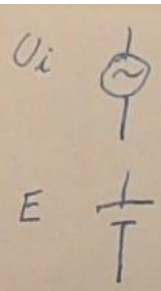
P.p. că D conducție

$U_D = 0,6 = U_D$

$V_{cc} = U_D + R_1 I_D \Rightarrow$

$$I_D = \frac{V_{cc} - U_D}{R_1} = 1mA$$

2) liniarizare  $\Rightarrow$  $R_D = \frac{1}{40 I_D} = 25\,\Omega$



② $C \frac{I_C}{\downarrow} \Big\downarrow U_C$ $\quad I_C = C \frac{dU_C}{dt} \Rightarrow$

$I_C > 0$, $U_C \geq 0$, $U_C \nearrow$

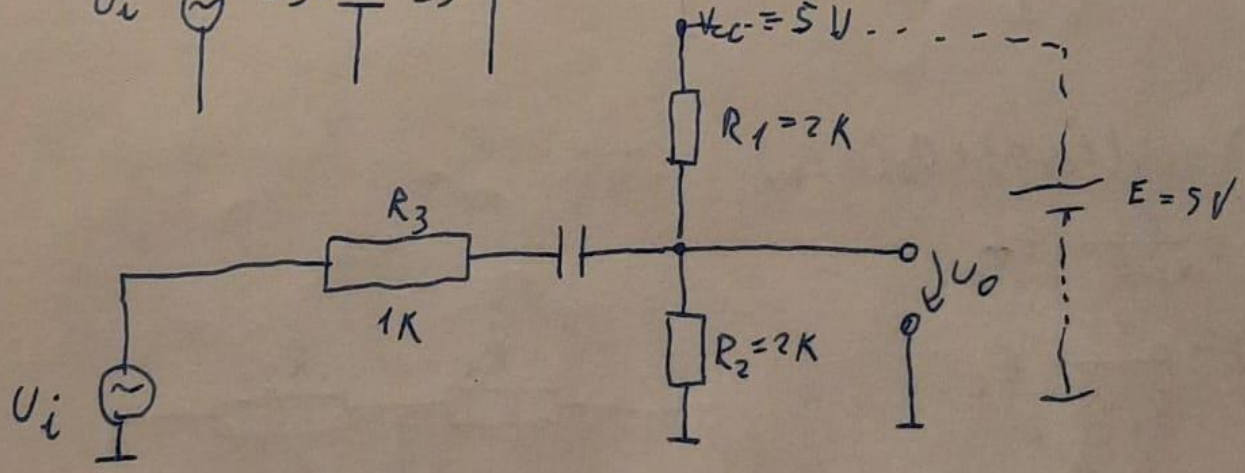
$I_C = 0$, tensiune const., U_C const.

$I_C < 0$, $U_C \leq 0$, $U_C \searrow$

$$\frac{I_C}{C} = \frac{dU_C}{dt}$$

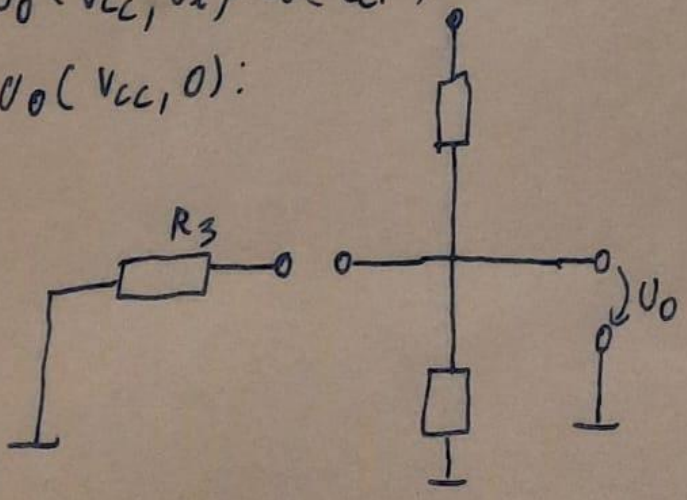
E ⊥ ⊤ $\Rightarrow$ C ⊥ ⊤ $\Rightarrow$ |

U_i ~ $\Rightarrow$ C ⊥ ⊤ $\Rightarrow$ |

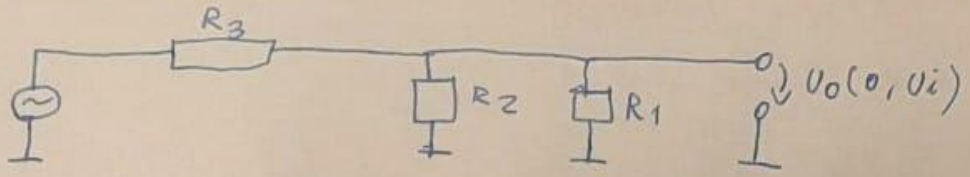


$U_0(V_{CC}, U_i) = U_0(V_{CC}, 0) + U_0(0, V_i)$

$U_0(V_{CC}, 0)$:




$$U_0(V_{CC}, 0) = V_{CC} \frac{R_1}{R_1 + R_2} = 2{,}5\ V$$

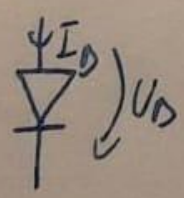



$$U_0(0, U_i) = \frac{R_1 \| R_2}{R_3 + R_1 \| R_2} U_i = \frac{1K}{1K+1K} U_i = \frac{U_i}{2}$$

$$U_0(V_{cc}, U_i) = 2{,}5\ V + \frac{U_i}{2}$$



Reactanță condensatorului: $\frac{1}{j\omega C}$

2. 



P.S.F. (punct static de funcționare)

Curs 10
DEMEX

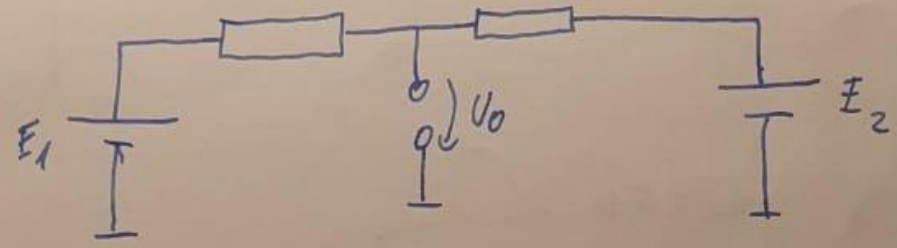
REGIM BINAR

1) - SUPER POZIȚIE

dacă cir. liniar

funcție liniară $f(\lambda a + \beta b) = \lambda f(a) + \beta f(b)$

$f(u_1, u_2) = f(u_1, 0) + f(0, u_2)$

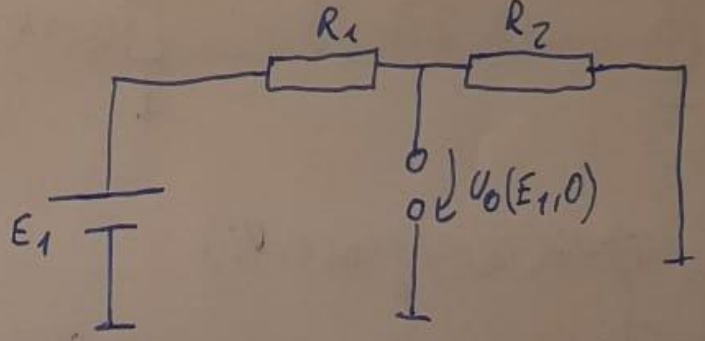


$U_0(E_1, E_2) = U_0(E_0, 0) + U_0(0, E_2)$

$U_0(E_1, 0) = \frac{R_2}{R_1 + R_2} \cdot E_1$

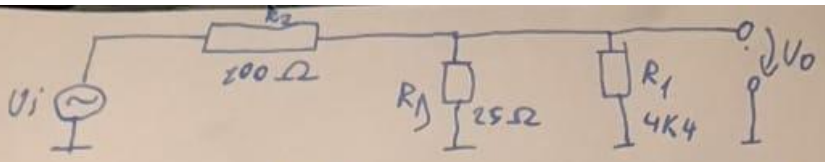
$U_0(0, E_2) = \frac{R_1}{R_1 + R_2} E_2$

~~$U_0(E_1, E_2) = \frac{R_2 E_1 + R_1 E_2}{R_1 + R_2}$~~



$U_0(E_1, E_2) = \frac{R_2 E_1 + R_1 E_2}{R_1 + R_2} =$

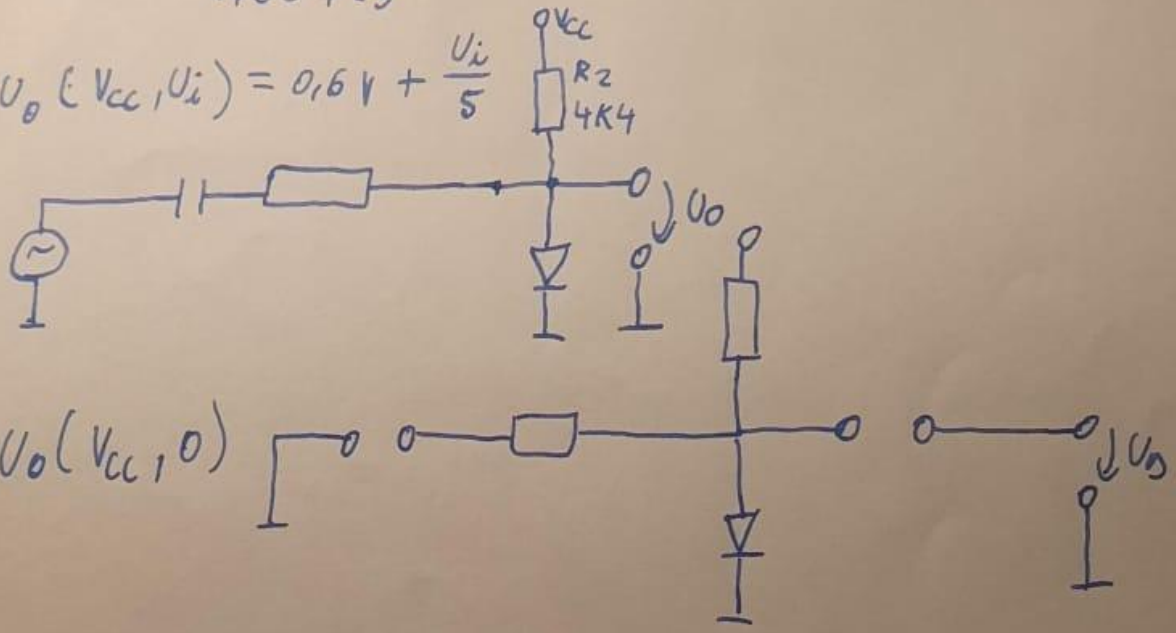
$= \frac{\frac{E_1}{R_2} + \frac{E_2}{R_1}}{\frac{1}{R_1} + \frac{1}{R_2}}$



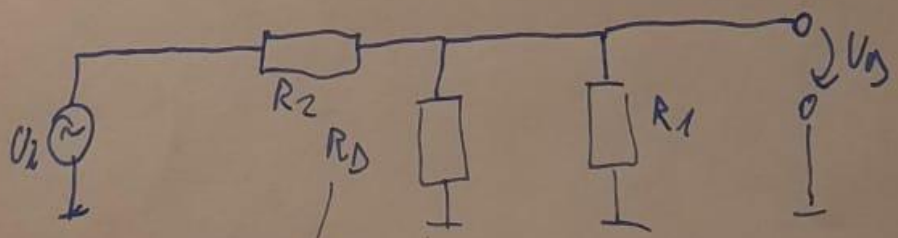
$$U_0(0, U_i) = \frac{R_1 \| R_D}{R_1 \| R_D + R_2} U_i \simeq \frac{25\,\Omega}{25 + 100\,\Omega} U_i = \frac{U_i}{5}$$

$$R_1 \| R_D = \frac{25 \cdot 4400}{4400 + 25} \simeq 25$$

$$U_0(V_{CC}, U_i) = 0{,}6\,V + \frac{U_i}{5}$$



$U_0(0, U_i)$ nu se schimbă nimic



Rezistență dinamică

$$U_0(V_{CC}, U_i) = \frac{U_i}{5}$$